Printed Pages : 07

Paper ID: 17035 **Roll No.....**

END SEMESTER EXAMINATION, 2023-24
(TERM : 2302)
ARP 306 : CAMPUS TO CORPORATE

Set A

Time : 2 Hrs. **Max. Marks: 50**

Note: 1. **All** Sections are compulsory.
2. Assume missing data suitably, if any.

CO1: Develop a creative resume, cover letters, interpret job descriptions and interpret KRA and KPI statements and art of conflict management.
CO2: Build negotiation skills to get maximum benefits from deals in practical life scenarios.
CO3: Develop skills of personal branding to create a brand image and self-branding
CO4: Acquire higher level competency in use of logical and analytical reasoning such as direction sense, strong and weak arguments
CO5: Develop higher level strategic thinking and diverse mathematical concepts through building analogies, odd one out
CO6: Demonstrate higher level quantitative aptitude such as average, ratio & proportions, mixtures & allegation for making business decisions.

APTITUDE AND REASONING

Attempt ALL questions of the following: $(50 \times 1 = 50)$

		CO_S	BTL
	(Directions 1-5): There are 7 books B1, B2, B3, B4, B5, B6, and B7 published in 7 different month January, February, March, April, June, August, and October. B1 is published in the month having less than 31 days but not in April. There are 3 books published between B1 and B3. B2 is published in one of the months after B4. No book is published between B2 and B4. B5 is published in one of the months before B7. B5 is not published in a month having maximum number of days. No book is published between B7 and B5.	CO4	K3
1.	Which book is published in the month of March? (a) B6 (b) B7 (c) B1 (d) B3		
2.	Which book among the following is published between the months of June and October? (a) B4 (b) B6 (c) B7 (d) B2	CO4	K3
3.	Which among the followings are published in the months with highest number of days? (a) B5, B6, B3 and B1 (b) B6, B7, B4 and B3 (c) B7, B6, B4 and B2 (d) B3, B7, B4 and B2	CO4	K3
4.	Who among the following is published in the month of February? (a) B2 (b) B4 (c) B5 (d) None of these	CO4	K3
5.	Which of the following statements is true? (a) B1 is published in the month of October. (b) B3 is published between March and June. (c) B6 is published in a month after B2 (d) None is true	CO4	K3

Directions (6-10): Study the following information carefully and answer the question given below: CO4 K3

Seven boxes, A, B, C, D, E, F, and G are kept one above another in different stacks but not necessarily in the same order. These stacks are numbered 1 to 7 from bottom to the top respectively. G is kept at an odd prime-numbered position. Three boxes are stacked in between A and F, A is kept at a position below G. Box B is kept immediately below box D. Box C is not adjacent to box (A) Three boxes are kept between D and G, D is kept above G.

6. How many boxes are kept between B and E?
(a) 2 (b) 1 (c) 3 (d) 4

7. Which of the following box is kept at the lowermost position? CO4 K3
(a) E (b) C (c) F (d) A

8. Which of the following box is adjacent to box G? CO4 K3
(a) B (b) F (c) A (d) C

9. In which position box E is kept? CO4 K3
(a) 2nd (b) 3rd (c) 5th (d) 7th

10. Box F is kept at the _____ position. CO4 K3
(a) 7th (b) 4th (c) 2nd (d) 5th

(Directions 11-13): Figures A and B are related in a particular manner. Establish the same relationship between Figures C and D by choosing a figure from amongst the alternatives, which would replace the question mark. CO5 K2

11.
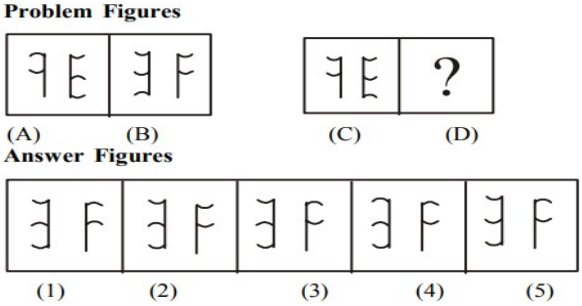

(a) 1 (b) 2 (c) 3 (d) 5

12. CO5 K2
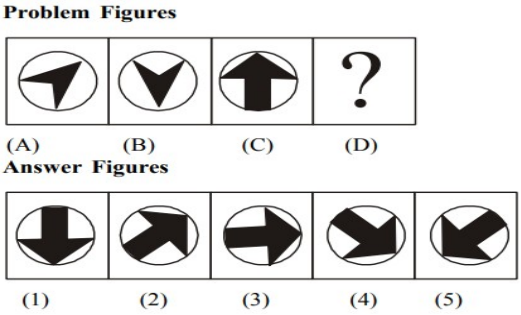

(a) 1 (b) 2 (c) 4 (d) 3

13. CO5 K2
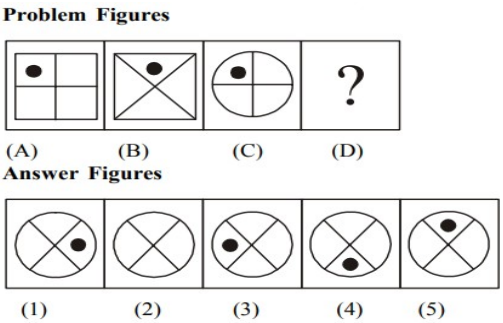

(a) 1 (b) 5 (c) 3 (d) 2

Contd……

(Directions 14-16): Select a figure from amongst the Answer Figures which will continue the same series as established by the five Problem Figures. CO5 K2

14. Problem Figures: Answer Figures:

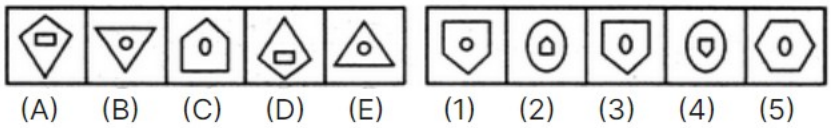

(a) 1 (b) 2 (c) 3 (d) 5

15. Problem Figures: Answer Figures: CO5 K2

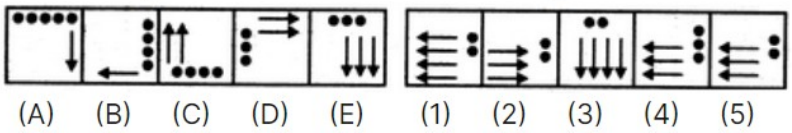

(a) 1 (b) 5 (c) 3 (d) 4

16. Problem Figures: Answer Figures: CO5 K2

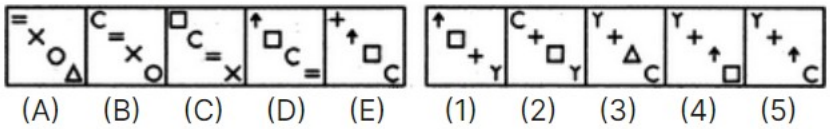

(a) 1 (b) 2 (c) 3 (d) 4

17. A university library budget committee must reduce exactly five of eight areas of expenditure—G, L, M, N, P, R, S, and W—in accordance with the following conditions: CO4 K3

1. If both G and S are reduced, W is also reduced.
2. If N is reduced, neither R nor S is reduced.
3. If P is reduced, L is not reduced.
4. Of the three areas L, M, and R, exactly two are reduced.

If both M and R are reduced, which one of the following is a pair of areas neither of which could be reduced?

(a) G, L (b) G, N (c) L, N (d) P, S

(Directions 18-19): A team of five members is to be selected. There are five boys namely P, Q, R, S, and T are given and four girls namely W, X, Y, and Z for the selection. There are certain conditions for the selection. They are as follow. CO4 K3

P and Z are always together.
X and Y are never together.
Q and Y are never in the same group.
R and T always stay together.
X and S are never together.

18. If P and R are the two members of the group than the other members that cannot be in the same group are _____.

(a) Q T Z (b) S T Z (c) T Z W (d) W X T

19. A team of five members is to be selected. There are five boys namely P, Q, R, S, and T are given and four girls namely W, X, Y, and Z for the selection. There are certain conditions for the selection. They are as follow. CO4 K3

P and Z are always together.
X and Y are never together.
Q and Y are never in the same group.

R and T always stay together.
X and S are never together.
If the two members of the group are girls and S, the boy is one among the group members, then what will be the other members of the group?

(a) W X Q R (b) W X R T (c) W Z P Q (d) W Z R T

(Directions 20-22): Each question given below consists of a statement, followed by two arguments numbered I and II. You have to decide which of the arguments is a 'strong' argument and which is a 'weak' argument. CO4 K4

20. **Statement:** Statement: Should there be only one rate of interest for term deposits of varying durations in banks?
Arguments:
1. No. People will refrain from keeping money for longer duration resulting into reduction of liquidity level of banks.
2. Yes. This will be much simple for the common people and they may be encouraged to keep more money in banks.
(a) If only 1 is a strong argument
(b) If only 2 is a strong argument
(c) Neither argument 1 or 2 is strong
(d) 1 & 2 – both are strong arguments.

21. **Statement:** Should young entrepreneurs be encouraged? CO4 K4
Arguments:

1. Yes. They will help in industrial development of the country.
2. Yes. They will reduce the burden on employment market.
(a) If only 1 is a strong argument (b) If only 2 is a strong argument
(c) Neither argument 1 or 2 is strong (d) 1 & 2 – both are strong arguments.

22. **Statement:** Should the government invest in infrastructure? CO4 K4
Arguments:
I. Yes, it is the backbone of the economy.
II. No, it would be assuming too big a role.
(a) If only 1 is a strong argument
(b) If only 2 is a strong argument
(c) Neither argument 1 or 2 is strong
(d) 1 & 2 – both are strong arguments.

23. By selling an article for Rs. 825, a man loses equal to 1/3 of its selling price- CO6 K5
(i). Find the cost price of the article?
(ii). Find the profit percent or the loss percent made, if the same article is sold for Rs. 1,265.

(a) 550, 10% (b) 1100, 15% (c) 1000, 15% (d) 550, 15%

24. A toy was sold by the seller after giving a discount of 24% for Rs.114. What is the cost price of the toy, if the ratio of marked price to cost price is 5: 7? CO6 K5
(a) Rs. 200 (b) Rs. 205 (c) Rs. 208 (d) Rs. 210

25. A man purchased 150 pens at the rate of Rs. 12 per pen. He sold 50 pens at a gain of 10%. The percentage gain at which he must sell the remaining pens so as to gain 15% on the whole outlay is CO6 K5

(a) $21\frac{1}{2}$ % (b) 20% (c) 17% (d) $17\frac{1}{2}$%

26. A profit of 8% is made by selling a shirt after offering a discount of 12%. If the marked price of the shirt is Rs. 1080, find its cost price. CO6 K5
(a) Rs. 890 (b) Rs. 880 (c) Rs. 980 (d) Rs. 900

27. By selling 8 articles, a tradesman makes a loss equal to the cost price of 4 articles. Find loss%. CO6 K5
(a) 25% (b) 100/3% (c) 50% (d) None of these

28. A alone completes the work in 16 days and the efficiency of A is 25% less than the efficiency of (B) If A, B and C together can complete the work in 6 days, in how many days C alone complete the work? CO6 K5
(a) 36 days (b) 40 days (c) 48 days (d) 56 days

29. A can complete a piece of work in 18 days and B can complete the same work in 9 days. A and B start the work together, after 3 days B left. In how many days the remaining work will be completed by A alone? CO6 K5
(a) 9 days (b) 10 days (c) 12 days (d) 14 days

30. 4 men and 6 women together can complete a work in 5 days and 6 men and 4 women do the same work in 4 days. In how many days 4 men and 2 women together complete the work? CO6 K5
(a) 6.25 days (b) 4.25 days (c) 12.25 days (d) 10.25 days

31. 24 men were appointed to complete the work in 40 days. But after 20 days, it was found that only one third of the work was completed. In how many extra men needed to complete the work in time? CO6 K5
(a) 20 (b) 22 (c) 24 (d) 28

32. A can complete the work in 36 days and A and B together can complete the half of the work in 6 days. In how many days A, B and C together can complete the work if the efficiency of C is double of B? CO6 K5
(a) 3(1/7) days (b) 4(1/7) days (c) 5(1/7) days (d) 6(1/7) days

33. There are 12 boys and 8 girls in a coaching centre. If three of them scored first mark, then what is the probability that one of the three is a girl and the other two are boys? CO6 K5
(a) 14/75 (b) 22/55 (c) 44/95 (d) None of these

34. Two dice are thrown simultaneously. What is the probability of getting the sum of the face number is at least 10? CO6 K5
(a) 1/6 (b) 1/3 (c) 2/3 (d) 5/6

35. Two dice are thrown simultaneously. What is the probability of getting the sum of the face number is at most 5? CO6 K5
(a) 2/18 (b) 5/18 (c) 4/9 (d) 2/9

36. An urn contains 4 red balls, 5 green balls and 6 white balls, If one ball is drawn at random, find the probability that it is neither red nor white? CO6 K5
(a) 1/3 (b) 1/4 (c) 1/5 (d) 2/3

37. Three coins are tossed simultaneously. Find the probability that there is exactly two tails? CO6 K5
(a) 3/8 (b) 5/8 (c) 7/8 (d) 1/8

38. In how many different ways can the letters of the word ‘BANKING’ be arranged so that the vowels always come together? CO6 K5
(a) 120 (b) 240 (c) 720 (d) 540

39. How many 4 letter code can be formed using the first 9 letters of the English alphabets, if no letter can be repeated? CO6 K5
(a) 3024 (b) 3036 (c) 3021 (d) 3034

40. In how many ways can 3 people be seated in a row containing 6 seats? CO6 K5
(a) 110 (b) 130 (c) 140 (d) 120

41. Rahul invested Rs.5600 in a simple interest scheme at R% per annum for 3 years. After 3 years, he got the total amount of Rs.7616. Find the value of R? CO6 K5
(a) 15 (b) 12 (c) 18 (d) 20

42. A sum of Rs. 3000 is lent out in two parts. In such a way that the simple interest on one part at 10% per annum for 5 years is equal to that on another part at 12.5% per annum for 4 years. Then find the sum invested in 12.5% interest? CO6 K5
(a) Rs. 1750 (b) Rs. 1500 (c) Rs. 2500 (d) Rs. 2200

43. The difference between compound interest and simple interest for two years on an amount of Rs.2800 at that rate is Rs.40.32. Find the rate of interest per annum? CO6 K5
(a) 12% (b) 15% (c) 16% (d) 18%

44. A man put a certain sum for 5 years on simple interest at a certain rate. Had it been put at 5 % higher rate; it would have fetched Rs. 3750 more. Find the sum? CO6 K5
(a) Rs. 22000 (b) Rs. 26000 (c) Rs. 15000 (d) None of these

45. If Rs. 1200 amounts to 1597.2 in three years compounded annually, find the rate of interest per annum. CO6 K5
(a) 5% (b) 11% (c) 8% (d) None of these

46. What is the CI accrued on an amount of Rs. 12000 at the rate of 9% per annum at the end of 2 years? CO6 K5
(a) Rs. 2545 (b) Rs. 2257.20 (c) Rs. 2986 (d) Rs. 2775.40

47. The sum age of A and B after 4 years is 28. If the ratio of the present age of A to B is 3: 2, then find the average of their ages after 6 years. CO6 K5
(a) 10 years (b) 16 years (c) 12 years (d) 8 years

48. 10 years ago, Elephant was five times older than Giraffe. Five years from now, the age of Elephant will be twice the age of the Giraffe. What was the ratio of the age of Elephant and Giraffe five years ago? CO6 K5
(a) 5:1 (b) 3:1 (c) 1:4 (d) 2:5

49. Average ages of Reema and Riya after 4 years is 44 years and the average ages of Riya and Reena is 34 years and the average age of Reema and Reena 8 years ago is 18 years. Find the sum of the ages of Reena, Reema and Riya? CO6 K5
(a) 104 (b) 100 (c) 108 (d) 96

50. The ratio of the age of a mother and her daughter is 7: 5 now. If the product of their ages is 3500, then find the daughter's age 20 years ago. CO6 K5
(a) 25 years (b) 30 years (c) 35 years (d) 40 years

ROUGH PAGE

ROUGH PAGE